3 The following diagrams show the structures of an element, one of its oxides and its halides. What could the element be?

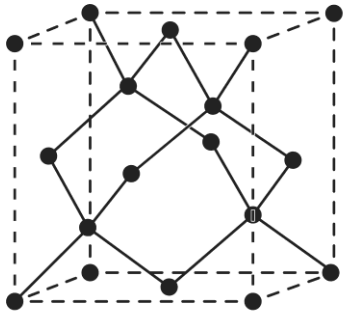

● element

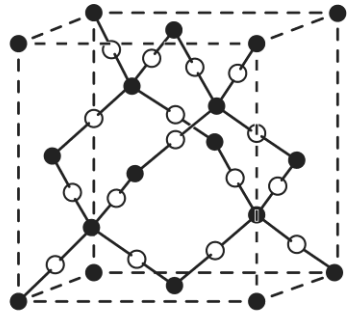

● element
○ oxygen

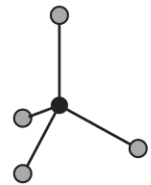

● element
● halogen

A aluminium **B** carbon **C** phosphorus **D** silicon