21 When cyclohexene reacts with bromine, only racemic *trans*-1,2-dibromocyclohexane is obtained. No *cis*-1,2-dibromocyclohexane is obtained.

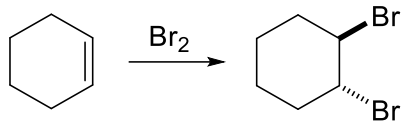

cyclohexene *trans*-1,2-dibromo-cyclohexane

1-methylcyclohexene reacts with iodine monobromide, IBr, via the same mechanism giving the Markovnikov's product, M.

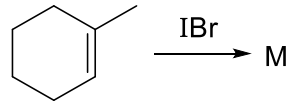

1-methylcyclohexene

Which of the following is likely to be the structure of M?

A

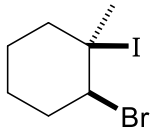

B

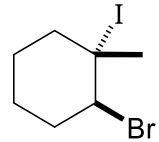

C

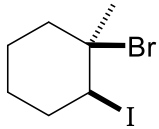
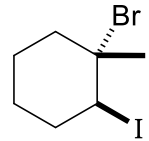
D